UNIVERSIDAD DEL VALLE DE ATEMAJAC
PREPARATORIA
2do examen parcial CÁLCULO

Nombre _____

Grado y grupo _____ **Matricula** _____

1.- Grafique las siguientes funciones (20 puntos):

$y = 3x - 4$



$y = \sqrt{x + 9}$



$-3x + y = 0$



$y = x^2 + 5x + 3$



2.- Obtenga las siguientes asíntotas y grafiquémostelas (15 puntos)

i) $$\frac{x^2+5}{x-6}$$



ii) $$\frac{10x^2+4}{5x^2-4}$$



iii) $$\frac{x-27}{x^2+4x+27}$$



3.- Grafique las siguientes funciones e identifique si son creciente, decreciente o constante (15 puntos)

i) $f(x) = 8$



ii) $f(x) = 2x + 4$



iii) $f(x) = -x^2 - 5$



4.- Límites (20 puntos):

i) $\lim_{x \to 6} f(x) = x + 8$

ii) $\lim_{x \to 5} f(x) = 3x^3 + 2x^2 + x$

iii) $\lim_{x \to \infty} f(x) = -x^2 + 2x + 1$

iv) $\lim_{x \to -\infty} f(x) = x^3 - 900x^2 - 1234$

v) $\lim_{x \to 9} f(x) = \dfrac{x^2 - 64}{x - 8}$

vi) $\lim_{x \to 4} f(x) = \dfrac{x^2 - 4}{x - 2}$

vii) $\lim_{x \to 2} f(x) = \dfrac{x^2 - 1}{x^2 - 3x + 2}$

viii) $\lim_{x \to -3} f(x) = \dfrac{x^2 + 3x + 2}{x^2 - x - 2}$

ix) $\lim_{x \to \infty} f(x) = \dfrac{8x^2 + 2x + 123123}{2x^2 + 3}$

x) $\lim_{x \to \infty} f(x) = \dfrac{8x + 10}{x^2 - 1}$

6.- Derivadas (20 puntos):

I) $f(x) = 5x^5 + 4x^3 + 2x^2 + x + 25876$

II) $f(x) = 299792458$

III) $f(x) = \dfrac{5}{x^5} + \dfrac{10}{x^3} + \dfrac{15}{x^2}$

IV) $f(x) = \dfrac{10}{5}x^3 + \dfrac{2}{3}x^2 + \dfrac{3}{4}x + 67$

V) $f(x) = 4x^3 + \dfrac{7}{5}x$

VI) $f(x) = \sqrt[4]{7x^2}$

VII) $f(x) = \dfrac{5}{x^5} + \dfrac{5}{x^4} - \dfrac{10}{x^3}$

7.- Calcule la segunda y tercera derivada (10 puntos):

$y = 10x^5 + 10x^4 + 10x3$

$y = 100x^6 + 50x^3 - 25x^2 + 12$